Adda247 GET IT ON Google Play

RAILWAY RECRUITMENT BOARDS
रेलवे भर्ती बोर्ड

RRB NTPC 30th March 2016 Shift 3

Roll No:	
Participants Name:	
Test Center Name:	
Test Date:	30/03/2016
Test Time:	4:00 PM - 5:30 PM
Subject:	RRB NTPC Graduate

1. Options shown in green color with a tick icon are correct
2. Chosen option on top right of the question indicates the option selected by the candidate

Q.1 Find the factors of $(x^2 - x - 132)$

Question ID : **2055231090**
Status : **Answered**
Chosen Option : **1**

A. $(x-11)(x-12)$
B. $(x+12)(x-11)$
C. $(x+11)(x+12)$
D. $(x-12)(x+11)$

Ans
✔ 1. D
✘ 2. B
✘ 3. A
✘ 4. C

Q.2 A college council is auditioning students for a cultural festival. They must satisfy the following criteria –

1. Student must know at least one dance form.
2. Student must know to play at least one musical instrument.
3. Student must have good acting skills.

Which one of the following will the council definitely select?

Question ID : **2055231133**
Status : **Answered**
Chosen Option : **1**

A. Z is a Bharat Natyam dancer, a violinist but does not have any acting skills.
B. P plays football, guitar, has acted in road shows and is a classical dancer.
C. J is a contemporary dancer, a great actor and is planning to learn flute.
D. A plays sitar, is a hip-hop dancer and does not have any acting skills.

Ans
✔ 1. B
✘ 2. C
✘ 3. A
✘ 4. D

Q.3 If **RESEARCH** is $#!#%$&@ then **SCARE** is

Question ID : **2055231104**
Status : **Answered**
Chosen Option : **1**

A. !&%$#
B. !@%$#
C. !$%#&
D. !@%#$

Ans
✔ 1. A

Test Prime

ALL EXAMS, ONE SUBSCRIPTION

70,000+ Mock Tests

Personalised Report Card

Unlimited Re-Attempt

600+ Exam Covered

Previous Year Papers

500% Refund

ATTEMPT FREE MOCK NOW

Adda247 GET IT ON Google Play

✗ 2. B

✗ 3. D

✗ 4. C

Comprehension:

The likes and professions of five friends Rosy, Mary, Lily, Andy and Daisy are given. Consider the following information and answer questions based on it.

1. Rosy likes Yellow and is a Student.
2. The Librarian likes Green.
3. Mary and Andy like Purple and Blue respectively and neither of them is a Teacher.
4. Lily likes Brown and the Inspector likes Blue.
5. One of the five is a Principal.

SubQuestion No : 4

Q.4 Which colour does the Teacher like?

Question ID : **2055231118**
Status : **Answered**
Chosen Option : **3**

A. Blue
B. Brown
C. Purple
D. Green

Ans

✗ 1. C

✗ 2. A

✓ 3. B

✗ 4. D

Comprehension:

The likes and professions of five friends Rosy, Mary, Lily, Andy and Daisy are given. Consider the following information and answer questions based on it.

1. Rosy likes Yellow and is a Student.
2. The Librarian likes Green.
3. Mary and Andy like Purple and Blue respectively and neither of them is a Teacher.
4. Lily likes Brown and the Inspector likes Blue.
5. One of the five is a Principal.

SubQuestion No : 5

Q.5 Who is the Principal?

Question ID : **2055231117**
Status : **Answered**
Chosen Option : **2**

A. Daisy
B. Andy
C. Mary
D. Lily

Ans

✗ 1. D

✓ 2. C

✗ 3. A

✗ 4. B

Comprehension:

Adda247 GET IT ON Google Play

The likes and professions of five friends Rosy, Mary, Lily, Andy and Daisy are given. Consider the following information and answer questions based on it.

1. Rosy likes Yellow and is a Student.
2. The Librarian likes Green.
3. Mary and Andy like Purple and Blue respectively and neither of them is a Teacher.
4. Lily likes Brown and the Inspector likes Blue.
5. One of the five is a Principal.

SubQuestion No : 6

Q.6 Which among the following is the wrong pair?

A. Andy – Inspector
B. Purple – Principal
C. Daisy – Green
D. Rosy – Teacher

Question ID : **2055231119**
Status : **Answered**
Chosen Option : **1**

Ans
✔ 1. D
✘ 2. C
✘ 3. A
✘ 4. B

Q.7 1.123+11.23+112.3 =?

A. 123.453
B. 132.343
C. 124.643
D. 134.643

Question ID : **2055231074**
Status : **Answered**
Chosen Option : **4**

Ans
1. A
2. B
3. D
4. C

Note: For this question, discrepancy is found in question/answer. So, Th is question is ignored for all candidates.

Q.8 The standard deviation of the set {10, 10, 10, 10, 10} is

A. 0
B. 1
C. 5
D. 10

Question ID : **2055231099**
Status : **Answered**
Chosen Option : **2**

Ans
✘ 1. C
✔ 2. A
✘ 3. B
✘ 4. D

Q.9 Karan purchased one dozen pens for Rs. 120/- and sold a pack of 3 pens for Rs. 35/- each. What is his gain?

A. 16.67%
B. 20%
C. 15%
D. 33.33%

Question ID : **2055231087**
Status : **Answered**
Chosen Option : **1**

Ans
✔ 1. A
✘ 2. C

Adda247 GET IT ON Google Play

✗ 3. B

✗ 4. D

Q.10 If **Deplete** : **Exhaust** then **Replenish** : _____

Question ID : **2055231109**
Status : **Answered**
Chosen Option : **4**

A. Exhale
B. Inhale
C. Reuse
D. Restore

Ans
✗ 1. B
✗ 2. C
✗ 3. A
✓ 4. D

Q.11 What is the noise level of normal conversation?

Question ID : **2055231052**
Status : **Answered**
Chosen Option : **2**

A. About 60 dB
B. About 70 dB
C. About 80 dB
D. About 90 dB

Ans
✗ 1. C
✓ 2. A
✗ 3. B
✗ 4. D

Q.12 Statements followed by some conclusions are given below.

Question ID : **2055231121**
Status : **Answered**
Chosen Option : **2**

Statements:

1. X is 7 meters tall, Y is half as high and Z is 3 times the height of X.
2. P is taller than Z but shorter than A and B.

Conclusions:

I. B is the tallest of all.
II. The average height of X, Y and Z is less than 10 meters.

Find which of the given conclusions logically follows from the given statements.

A. Only conclusion I follows.
B. Only conclusion II follows.
C. Both I and II follow.
D. Neither I nor II follows.

Ans
✗ 1. A
✓ 2. D
✗ 3. B
✗ 4. C

Q.13 G is twice as fast as S in doing work. If G can do a work in 30 days less than S, how many days will they take to complete the work together?

Question ID : **2055231081**
Status : **Answered**
Chosen Option : **2**

A. 25
B. 20
C. 22
D. 15

Ans
✗ 1. D
✓ 2. B
✗ 3. A

Adda247 GET IT ON Google Play

✗ 4. C

Q.14 What is the ratio of simple interest earned on certain amount at the rate of 12% p. a. for 9 years and that for 12 years?

A. 1:2
B. 2:3
C. 3:4
D. 4:5

Question ID : **2055231085**
Status : **Answered**
Chosen Option : **1**

Ans
✓ 1. C
✗ 2. D
✗ 3. B
✗ 4. A

Q.15



Question ID : **2055231095**
Status : **Answered**
Chosen Option : **1**

What is the area of this trapezoidal garden? (All measurements are in cm)

A. 60 sq. cm
B. 180 sq. cm
C. 210 sq. cm
D. 240 sq. cm

Ans
✓ 1. D
✗ 2. C
✗ 3. A
✗ 4. B

Q.16 Select the alternative that shows a similar relationship as the given pair –
Mandatory : Compulsory

Question ID : **2055231110**
Status : **Answered**
Chosen Option : **2**

A. Philosophy : Idealism
B. Thesis : Proposition
C. Generosity : Narrow-mindedness
D. Hypothesis : Supposition

Ans 1. B
2. A
3. C
4. D

Note: For this question, discrepancy is found in question/answer. So, Th is question is ignored for all candidates.

Q.17 For how many months is a cheque valid from the date of issue?

Question ID : **2055231033**
Status : **Answered**
Chosen Option : **4**

A. 1 month
B. 2 months
C. 3 months
D. 6 months

Ans
✗ 1. A
✗ 2. B
✗ 3. D
✓ 4. C

Q.18

Question ID : **2055231044**
Status : **Answered**
Chosen Option : **2**

'Ganga Action Plan' initiated by the Union Government aims at

A. Streamlining the flow of Ganga river.
B. Reduction of pollution on Ganga river.
C. Efficient use of Ganga water for irrigation.
D. Using Ganga river for generating hydel energy.

Ans
✗ 1. C
✓ 2. B
✗ 3. A
✗ 4. D

Q.19 Find the range and mode of the data 17, 18, 28, 19, 16, 18, 17, 29, 18

Question ID : **2055231100**
Status : **Answered**
Chosen Option : **2**

A. 12 and 18
B. 13 and 18
C. 12 and 17
D. 11 and 17

Ans
✗ 1. A
✓ 2. B
✗ 3. D
✗ 4. C

Q.20 The percentage of nitrogen in the air is about

Question ID : **2055231055**
Status : **Answered**
Chosen Option : **3**

A. 74%
B. 76%
C. 78%
D. 80%

Ans
✗ 1. A
✗ 2. B
✓ 3. C
✗ 4. D

Q.21 K purchased a table for Rs. 11,000 and sold it for Rs. 13,500. What is his gain in percentage?

Question ID : **2055231089**
Status : **Answered**
Chosen Option : **1**

A. 19.8%
B. 20.6%
C. 22.7%
D. 22%

Ans
✓ 1. C
✗ 2. A
✗ 3. B
✗ 4. D

Q.22 Shimla Agreement 1972 between India & Pakistan was signed in

Question ID : **2055231036**
Status : **Answered**
Chosen Option : **3**

A. Barne's Court
B. Ellerslie Building
C. Viceregal Lodge
D. Gorton Castle

Ans
✗ 1. C

Adda247 GET IT ON Google Play

✔ 2. A
✘ 3. B
✘ 4. D

Q.23 The value of $(\sin\theta + \cos\theta)^2 =$

A. $1 + \sin^2\theta$
B. $\sin^2\theta + \cos^2\theta$
C. $1 + 2\cos\theta\sin\theta$
D. $\cos^2\theta + 1$

Question ID : **2055231096**
Status : **Answered**
Chosen Option : **4**

Ans
✘ 1. D
✘ 2. A
✘ 3. B
✔ 4. C

Q.24 The instrument used to regulate temperature to a particular degree is called

A. Thermostat
B. Thermometer
C. Pyrometer
D. Thermocouple

Question ID : **2055231070**
Status : **Answered**
Chosen Option : **3**

Ans
✘ 1. D
✘ 2. B
✔ 3. A
✘ 4. C

Q.25 Pressure is measured in terms of

A. Mass & Density
B. Work done
C. Force and Area
D. Force and Distance

Question ID : **2055231053**
Status : **Answered**
Chosen Option : **3**

Ans
✘ 1. D
✘ 2. A
✔ 3. C
✘ 4. B

Q.26 How many times does the number 3 occur in unit's place for numbers ranging from 1 to 100?

A. 20
B. 11
C. 10
D. 19

Question ID : **2055231071**
Status : **Answered**
Chosen Option : **4**

Ans
✘ 1. B
✘ 2. D
✘ 3. A
✔ 4. C

Q.27

Question ID : **2055231057**
Status : **Answered**

Between small and large human intestine which one is longer?

Chosen Option : **1**

A. Small intestine
B. Large intestine
C. Both are equal in length
D. Depends on male or female

Ans
✔ 1. A
✘ 2. D
✘ 3. C
✘ 4. B

Q.28 To conduct detailed study into disease causing organism in livestock, Biosafety Laboratory has been setup in India at

A. Ludhiana
B. Bengaluru
C. Anand
D. Allahabad

Question ID : **2055231060**
Status : **Answered**
Chosen Option : **3**

Ans
✘ 1. D
✘ 2. A
✘ 3. C
✔ 4. B

Q.29 A pole is taller than a Giraffe which is taller than a tree. A signal is shorter than a pole but taller than a building which is taller than a Giraffe. Who is the shortest?

A. Signal
B. Giraffe
C. Tree
D. Building

Question ID : **2055231114**
Status : **Answered**
Chosen Option : **3**

Ans
✘ 1. D
✘ 2. B
✔ 3. C
✘ 4. A

Q.30 Find the missing (?) in the series

NA, PC, RE, TG, ?, XK, ZM

A. IV
B. VI
C. VII
D. VJ

Question ID : **2055231105**
Status : **Answered**
Chosen Option : **4**

Ans
✘ 1. D
✘ 2. C
✘ 3. A
✔ 4. B

Q.31 Rearrange the jumbled letters to make a meaningful word and then select the one which is different.

A. DNHA
B. EDAH
C. THEA
D. IRHA

Question ID : **2055231122**
Status : **Answered**
Chosen Option : **1**

Ans
✔ 1. C
✘ 2. A

Adda247 GET IT ON Google Play

3. B

4. D

Q.32 Sunil has a son Karna and a sister Sangeeta who is the mother of Jagdish and Vijay. Harnish is Jagdish's maternal uncle. How is Harnish related to Karna?

A. Brother
B. Father
C. Nephew
D. Paternal Uncle

Question ID : **2055231113**
Status : **Answered**
Chosen Option : **4**

Ans
1. C
2. B
3. A
4. D ✔

Q.33 International Maritime Organisation is concerned with

A. Air pollution.
B. Sea pollution.
C. Adulteration in food.
D. Deforestation.

Question ID : **2055231045**
Status : **Answered**
Chosen Option : **3**

Ans
1. D
2. C
3. B ✔
4. A

Q.34 Find the G.C.F. & L.C.M. of 20 and 28.

A. 20,280
B. 5,280
C. 10,140
D. 4,140

Question ID : **2055231077**
Status : **Answered**
Chosen Option : **2**

Ans
1. B
2. D ✔
3. C
4. A

Q.35 Astrosat is India's first

A. Reconnaissance satellite
B. Remote sensing satellite
C. Space observatory
D. Communication satellite

Question ID : **2055231068**
Status : **Answered**
Chosen Option : **3**

Ans
1. C ✔
2. B
3. D
4. A

Q.36

Question ID : **2055231083**
Status : **Answered**

Ali travels a distance of 300 m in 2 minutes and 30 seconds. What is his speed in kmph?

Chosen Option : **1**

A. 6.9
B. 7.1
C. 7.2
D. 7.3

Ans
✔ 1. C
✘ 2. B
✘ 3. A
✘ 4. D

Q.37 Four pairs of words are given. Find the odd one out.

Question ID : **2055231111**
Status : **Answered**
Chosen Option : **4**

A. Chalk : Slate
B. Pencil : Notebook
C. Pen : Ink
D. Sketch Pen : Drawing Book

Ans
✘ 1. B
✘ 2. A
✘ 3. D
✔ 4. C

Q.38 The Gandhi-Irwin pact was signed in the year

Question ID : **2055231039**
Status : **Answered**
Chosen Option : **2**

A. 1930
B. 1931
C. 1932
D. 1933

Ans
✘ 1. A
✔ 2. B
✘ 3. C
✘ 4. D

Q.39 Twice the difference between two numbers is equal to their sum. If one number is 15, find the other number.

Question ID : **2055231072**
Status : **Answered**
Chosen Option : **3**

A. 15
B. 10
C. 5
D. 20

Ans
✘ 1. B
✘ 2. A
✔ 3. C
✘ 4. D

Q.40 The sum of three consecutive numbers is 126. Find the highest number.

Question ID : **2055231076**
Status : **Answered**
Chosen Option : **4**

A. 41
B. 42
C. 43
D. 44

Ans
✘ 1. D
✘ 2. B

Adda247 GET IT ON Google Play

✗ 3. A

✓ 4. C

Q.41 Surya is 25 years older than his son. In 5 years, he will be twice as old as his son. What will be Surya's age after 3 years?

A. 20
B. 23
C. 45
D. 48

Question ID : **2055231091**
Status : **Answered**
Chosen Option : **1**

Ans
✓ 1. D
✗ 2. A
✗ 3. B
✗ 4. C

Q.42 The name of the first bank established in India was

A. Bank of Hindustan
B. Reserve Bank of India
C. Imperial Bank
D. State Bank of India

Question ID : **2055231038**
Status : **Answered**
Chosen Option : **3**

Ans
✗ 1. B
✗ 2. C
✓ 3. A
✗ 4. D

Q.43 If **M** = 14, **TANK** = 61, then **STARDOM** = _____

A. 79
B. 89
C. 99
D. 109

Question ID : **2055231102**
Status : **Not Attempted and Marked For Review**
Chosen Option : **--**

Ans 1. D
2. C
3. B
4. A

Note: For this question, discrepancy is found in question/answer. So, Th is question is ignored for all candidates.

Q.44 What is the 4th proportional of 3, 8, 12, ?

A. 36
B. 26
C. 32
D. 16

Question ID : **2055231080**
Status : **Answered**
Chosen Option : **2**

Ans
✗ 1. A
✓ 2. C
✗ 3. B
✗ 4. D

Q.45

Question ID : **2055231066**

Adda247 GET IT ON Google Play

Which of the following is a Space-Based Augmentation System?

Status : **Not Attempted**
Chosen Option : **--**

A. INSAT
B. GAGAN
C. GSAT
D. SARAL

Ans
✗ 1. C
✓ 2. B
✗ 3. D
✗ 4. A

Q.46 An assertion (A) and a reason (R) are given below.

Assertion (A): Forest cover in the country has gradually decreased.
Reason (R): Encroachment by humans is one of the concerns for the forest department.

Choose the correct option.

Question ID : **2055231132**
Status : **Marked For Review**
Chosen Option : **4**

A. Both A and R are true and R is the correct explanation of A
B. Both A and R are true, but R is not the correct explanation of A
C. A is true, but R is false
D. A is false, but R is true

Ans
✗ 1. C
✗ 2. B
✗ 3. D
✓ 4. A

Q.47 If the interior angle of a polygon is 108°, then it is a

Question ID : **2055231094**
Status : **Answered**
Chosen Option : **3**

A. Octagon
B. Hexagon
C. Pentagon
D. Tetragon

Ans
✗ 1. A
✗ 2. D
✓ 3. C
✗ 4. B

Q.48 Rupee sign '₹' is a

Question ID : **2055231031**
Status : **Answered**
Chosen Option : **2**

A. Devanagari letter
B. Roman letter
C. Sanskrit Script
D. A combination of Roman & Devanagari letters

Ans
✗ 1. A
✓ 2. D
✗ 3. C
✗ 4. B

Q.49

Question ID : **2055231034**
Status : **Answered**
Chosen Option : **2**

Which of the following does not belong to the group?

A. Lakshadweep
B. Puducherry
C. Nicobar
D. Andaman

Ans
✗ 1. C
✓ 2. B
✗ 3. D
✗ 4. A

Q.50 The headquarters of ISRO is located at

Question ID : **2055231067**
Status : **Answered**
Chosen Option : **1**

A. Bengaluru
B. New Delhi
C. Pune
D. Mumbai

Ans
✓ 1. A
✗ 2. C
✗ 3. B
✗ 4. D

Q.51 Which of the following will appear third, if they are arranged according to a dictionary?

Question ID : **2055231120**
Status : **Answered**
Chosen Option : **2**

A. Autumn
B. Austere
C. Assert
D. Auspicious

Ans
✗ 1. C
✓ 2. B
✗ 3. D
✗ 4. A

Q.52 If $\sin\theta = 1/\sqrt{2}$ then $(\tan\theta + \cos\theta) =$

Question ID : **2055231097**
Status : **Answered**
Chosen Option : **2**

A. $1/\sqrt{2}$
B. $2/\sqrt{2}$
C. $3/\sqrt{2}$
D. $(1+\sqrt{2})/\sqrt{2}$

Ans
✗ 1. B
✓ 2. D
✗ 3. A
✗ 4. C

Q.53

Question ID : **2055231098**
Status : **Answered**
Chosen Option : **3**

The mean and median of 7, 5, 5, 2, 7, 6, 5, 3, 7, 6

A. 5.3 and 5
B. 5 and 6
C. 5 and 5.5
D. 5.3 and 5.5

Ans
✗ 1. C
✗ 2. A
✓ 3. D
✗ 4. B

Q.54 Find the similarity in the following:
Olive Oil, Coconut Oil, Cod liver Oil, Sunflower Oil

Question ID : **2055231112**
Status : **Answered**
Chosen Option : **1**

A. All of them are vegetable oils.
B. All of them are rich in Vitamin A.
C. All of them are rich in Vitamin D.
D. All of them are oils.

Ans
✓ 1. D
✗ 2. C
✗ 3. B
✗ 4. A

Q.55 Human nails are made of

Question ID : **2055231056**
Status : **Answered**
Chosen Option : **2**

A. Pigment
B. Elastin
C. Albumin
D. Keratin

Ans
✗ 1. A
✓ 2. D
✗ 3. C
✗ 4. B

Q.56 Eastern boundary of Kashmir is

Question ID : **2055231035**
Status : **Marked For Review**
Chosen Option : **1**

A. LOC
B. Jammu
C. POK
D. Ladakh region

Ans
✗ 1. B
✗ 2. C
✗ 3. A
✓ 4. D

Q.57

Adda247 GET IT ON Google Play

The medicine paracetamol is

A. An analgesic
B. An antipyretic
C. An analgesic and antipyretic
D. A nonsteroidal anti-inflammatory drug

Question ID : **2055231062**
Status : **Not Attempted and Marked For Review**
Chosen Option : **--**

Ans
✗ 1. A
✗ 2. B
✗ 3. D
✓ 4. C

Q.58 Sachin Tendulkar made his test debut in 1989 at

A. Karachi, Pakistan
B. Mumbai, India
C. Kolkata, India
D. Melbourne, Australia

Question ID : **2055231048**
Status : **Marked For Review**
Chosen Option : **1**

Ans
✗ 1. B
✗ 2. D
✗ 3. C
✓ 4. A

Q.59 Which key on a windows keyboard sets to full screen mode in most browsers?

A. F1
B. F10
C. F11
D. F12

Question ID : **2055231065**
Status : **Marked For Review**
Chosen Option : **2**

Ans
✗ 1. D
✗ 2. B
✗ 3. A
✓ 4. C

Q.60 The test for diagnosing HIV is

A. Pap Smear
B. ELISA
C. DNA
D. Mantoux

Question ID : **2055231069**
Status : **Answered**
Chosen Option : **2**

Ans
✗ 1. D
✓ 2. B
✗ 3. A
✗ 4. C

Q.61 B has 32 pens, 24 pencils and 16 erasers. How many sets of these three items can B make without any left over?

A. 6
B. 7
C. 8
D. 9

Question ID : **2055231078**
Status : **Answered**
Chosen Option : **2**

Ans

Adda247 GET IT ON Google Play

1. A
2. D
3. B
4. C ✔

Q.62 Air Quality Index is

A. A measuring instrument of air pollution.
B. A number.
C. For measuring humidity level.
D. For forecasting rain.

Question ID : **2055231061**
Status : **Answered**
Chosen Option : **4**

Ans
1. D
2. B ✔
3. C
4. A

Q.63 Who served as the first Deputy Prime Minister of independent India?

A. K. Kamaraj
B. Morarji Desai
C. Sardar Vallabhbhai Patel
D. C. Rajagopalachari

Question ID : **2055231037**
Status : **Answered**
Chosen Option : **1**

Ans
1. A
2. B
3. D
4. C ✔

Q.64 Gopal covers 100 km. He travels at a speed of 60 kmph for the first 40 km and the rest of the distance at 60 kmph. What is his average speed in kmph?

A. 44.20
B. 45.20
C. 46.20
D. 47.20

Question ID : **2055231084**
Status : **Answered**
Chosen Option : **4**

Ans
1. B
2. D
3. A
4. C

Note: For this question, discrepancy is found in question/answer. So, Th is question is ignored for all candidates.

Q.65 Secularism means

A. Not practicing any religion.
B. Practicing multiple religions.
C. Freedom to join any satsang.
D. Freedom of religion and worship.

Question ID : **2055231047**
Status : **Answered**
Chosen Option : **1**

Ans
1. D ✔
2. B
3. A
4. C

Adda247 GET IT ON Google Play

Q.66 A farmer purchased a piece of land for Rs. 18 lakh and spent Rs. 3 lakh for registration, fencing etc. He sold it for Rs. 24.57 lakh. Find his profit in percentage?

A. 15%
B. 14.15%
C. 16.5%
D. 17%

Question ID : **2055231088**
Status : **Answered**
Chosen Option : **1**

Ans
✔ 1. D
✘ 2. B
✘ 3. A
✘ 4. C

Q.67 National Science Day falls on

A. 26th February
B. 27th February
C. 28th February
D. 29th February

Question ID : **2055231059**
Status : **Answered**
Chosen Option : **4**

Ans
✘ 1. B
✘ 2. D
✔ 3. C
✘ 4. A

Comprehension:

Study the following diagram and answer questions based on it.

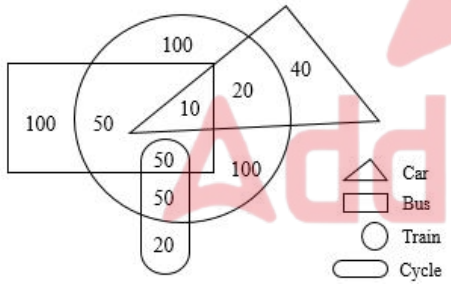

SubQuestion No : 68

Q.68 The ratio of total number of train travelers to the people who do not travel by train is

A. 27/16
B. 28/16
C. 37/16
D. 38/16

Question ID : **2055231126**
Status : **Answered**
Chosen Option : **2**

Ans
✘ 1. B
✔ 2. D
✘ 3. C
✘ 4. A

Comprehension:

Study the following diagram and answer questions based on it.

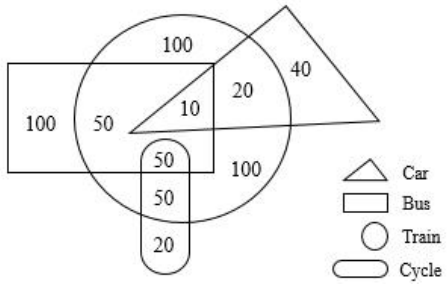

SubQuestion No : 69

Q.69 How many people who travel by train also travel by car or bus but not cycle?

A. 50
B. 70
C. 80
D. 100

Question ID : **2055231124**
Status : **Answered**
Chosen Option : **1**

Ans
✔ 1. C
✘ 2. D
✘ 3. B
✘ 4. A

Comprehension:

Study the following diagram and answer questions based on it.

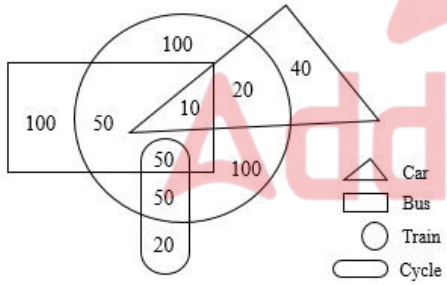

SubQuestion No : 70

Q.70 Which two modes of transport used by people are mutually exclusive?

A. Car – Bus
B. Car – Cycle
C. Bus – Cycle
D. Cannot be determined

Question ID : **2055231125**
Status : **Answered**
Chosen Option : **4**

Ans
✘ 1. D
✘ 2. C
✘ 3. A
✔ 4. B

Q.71

Question ID : **2055231106**
Status : **Answered**
Chosen Option : **1**

Find the missing (?) in the series

14, 28, 42, 56, ?, 84, 98

A. 68
B. 70
C. 72
D. 74

Ans
✔ 1. B
✘ 2. A
✘ 3. D
✘ 4. C

Q.72 After 9/11 tragedy, the rebuilt World Trade Center complex in New York is called

Question ID : **2055231051**
Status : **Marked For Review**
Chosen Option : **3**

A. New World Trade Center
B. Empire State Building
C. One World Trade Center
D. World Trade Complex

Ans
✔ 1. C
✘ 2. B
✘ 3. A
✘ 4. D

Q.73 The famous Nek Chand's Rock Garden is located in

Question ID : **2055231050**
Status : **Marked For Review**
Chosen Option : **4**

A. Srinagar
B. Jammu
C. Chandigarh
D. Shimla

Ans
✘ 1. D
✔ 2. C
✘ 3. B
✘ 4. A

Q.74 Expand: $(w-9)^2$

Question ID : **2055231092**
Status : **Answered**
Chosen Option : **3**

A. $(w^2-9w+81)$
B. $(w^2-9w+18)$
C. $(w^2-18w+81)$
D. $(w^2-18w-81)$

Ans
✘ 1. B
✘ 2. A
✔ 3. C
✘ 4. D

Q.75

Question ID : **2055231086**
Status : **Answered**

On a certain principal, simple interest amounts to Rs. 1,000 in 1 year at the rate of 10% p.a. What will be the effective rate of interest if the same is compounded on half yearly basis?

A. 10.10
B. 10.15
C. 10.20
D. 10.25

Chosen Option : **1**

Ans
✔ 1. D
✘ 2. A
✘ 3. C
✘ 4. B

Q.76 In a certain code language if **41095** is **READY** and **840327** is **FRAILS** then **83145 419** is

A. FEARY RED
B. FIERY RED
C. FAIRY RED
D. FIREY RED

Question ID : **2055231101**
Status : **Answered**
Chosen Option : **4**

Ans
✘ 1. C
✘ 2. A
✘ 3. D
✔ 4. B

Q.77 Which one of the following does not belong to the group?

A. Monitor
B. Keyboard
C. Webcam
D. Mouse

Question ID : **2055231064**
Status : **Answered**
Chosen Option : **3**

Ans
✘ 1. D
✘ 2. C
✔ 3. A
✘ 4. B

Q.78 If **RATIONAL** is **CLETZYLW** then **EXPERIENCE** is

A. OIZOCTOYMO
B. QJBDUQZOQ
C. OHZBSOXMO
D. PIAPCTPYNP

Question ID : **2055231103**
Status : **Answered**
Chosen Option : **1**

Ans
✔ 1. D
✘ 2. C
✘ 3. A
✘ 4. B

Q.79 1$ = Rs. 67.89. Money changer adds a margin of Rs. 1.11. What will be the cost of $150?

A. Rs. 10,183
B. Rs. 10,350
C. Rs. 10,330
D. Rs. 10,450

Question ID : **2055231073**
Status : **Answered**
Chosen Option : **3**

Ans
✘ 1. A
✘ 2. D
✔ 3. B
✘ 4. C

Adda247 GET IT ON Google Play

Q.80 If the area of a circle is 9π sq. cm then its circumference is

A. 9 cm
B. 6π cm
C. 3π cm
D. 6 cm

Question ID : **2055231093**
Status : **Answered**
Chosen Option : **1**

Ans
✔ 1. B
✘ 2. C
✘ 3. D
✘ 4. A

Q.81 'Maharatna' refers to a group of

A. Emerging small and medium enterprises.
B. Central public sector enterprises.
C. Leading private sector enterprises.
D. Leading multi-national companies.

Question ID : **2055231032**
Status : **Answered**
Chosen Option : **4**

Ans
✘ 1. A
✘ 2. C
✘ 3. D
✔ 4. B

Comprehension:

The bar chart represents number of fiction and non-fiction books in four libraries L1, L2, L3 and L4. Consider the bar chart and answer questions based on it.

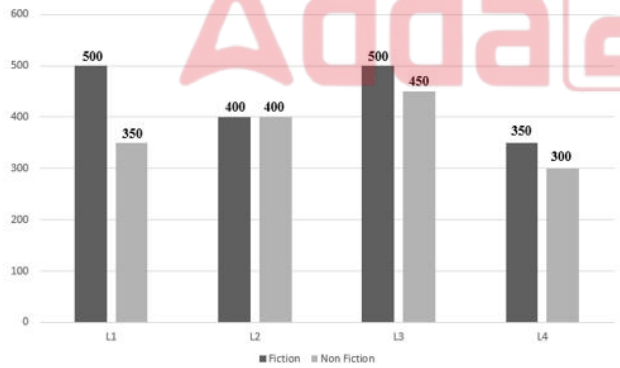

SubQuestion No : 82

Q.82 What is the percentage difference of total number of Fiction books in libraries L3 and L4 to the Non Fiction books in L3 and L4?

A. 13.34%
B. 11.76%
C. 6.67%
D. It is the same

Question ID : **2055231129**
Status : **Answered**
Chosen Option : **3**

Ans 1. B
2. C
3. A
4. D

Note: For this question, discrepancy is found in question/answer. So, Thi s question is ignored for all candidates.

Comprehension:

The bar chart represents number of fiction and non-fiction books in four libraries L1, L2, L3 and L4. Consider the bar chart and answer questions based on it.

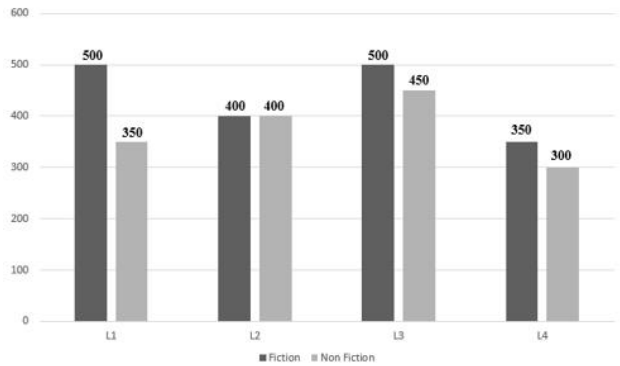

SubQuestion No : 83

Q.83 The ratio of total books of libraries L1 and L3 to L2 and L4 is

Question ID : **2055231128**
Status : **Answered**
Chosen Option : **2**

A. 29/36
B. 33/32
C. 36/29
D. 32/33

Ans
✗ 1. B
✓ 2. C
✗ 3. D
✗ 4. A

Comprehension:

The bar chart represents number of fiction and non-fiction books in four libraries L1, L2, L3 and L4. Consider the bar chart and answer questions based on it.

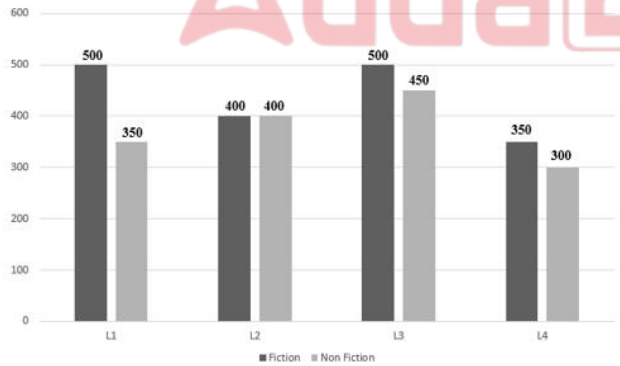

SubQuestion No : 84

Q.84 The ratio of total number of Non Fiction to Fiction books in all libraries is

Question ID : **2055231130**
Status : **Answered**
Chosen Option : **1**

A. 7/6
B. 6/7
C. 15/17
D. 17/15

Ans
✓ 1. B
✗ 2. A
✗ 3. D

Adda247 GET IT ON Google Play

✗ 4. C

Q.85 Which of the following statements is true with respect to ASCII?

A. A programming language
B. ASCII chart is not for decimals
C. American security code for information interchange
D. A character encoding scheme

Question ID : **2055231063**
Status : **Marked For Review**
Chosen Option : **1**

Ans
✓ 1. D
✗ 2. B
✗ 3. A
✗ 4. C

Q.86 The first Olympics games was held in

A. U. K.
B. U. S. A.
C. Greece
D. Italy

Question ID : **2055231042**
Status : **Answered**
Chosen Option : **1**

Ans
✓ 1. C
✗ 2. A
✗ 3. D
✗ 4. B

Q.87 A person carries Rs. 165/- in the form of currency notes of denominations Rs. 5, Rs. 10 & Rs. 20 in the ratio of 3:2:1. What is the value of currency notes of Rs. 20 denomination?

A. Rs. 60
B. Rs. 100
C. Rs. 40
D. Rs. 80

Question ID : **2055231079**
Status : **Answered**
Chosen Option : **4**

Ans
✗ 1. D
✗ 2. B
✗ 3. C
✓ 4. A

Q.88 Which of the following fractions is the highest of all?

A. 5/4
B. 4/3
C. 3/2
D. 6/5

Question ID : **2055231075**
Status : **Answered**
Chosen Option : **3**

Ans
✗ 1. D
✗ 2. B
✓ 3. C
✗ 4. A

Q.89

Question ID : **2055231049**
Status : **Answered**
Chosen Option : **4**

Name the Indian who became the CEO of Google in 2015.

A. Satya Nadella
B. Cyrus Mistry
C. Sundar Pichai
D. Vishal Sikka

Ans
✗ 1. D
✗ 2. A
✗ 3. B
✓ 4. C

Q.90 The periodicity of the Commonwealth games is

Question ID : **2055231043**
Status : **Answered**
Chosen Option : **4**

A. No fixed interval
B. 4 years
C. 5 years
D. 6 years

Ans
✓ 1. B
✗ 2. A
✗ 3. D
✗ 4. C

Q.91 Cricket World Cup 2023 is scheduled to be hosted by

Question ID : **2055231041**
Status : **Not Attempted**
Chosen Option : **--**

A. India
B. Pakistan
C. Sri Lanka
D. West Indies

Ans
✗ 1. B
✗ 2. C
✓ 3. A
✗ 4. D

Q.92 Which country launched its first commercial satellite on 24th November 2015 as a part of its National Space Program?

Question ID : **2055231058**
Status : **Marked For Review**
Chosen Option : **1**

A. Russia
B. India
C. Japan
D. China

Ans
✓ 1. C
✗ 2. D
✗ 3. A
✗ 4. B

Q.93

Question ID : **2055231046**
Status : **Answered**
Chosen Option : **2**

Which of the following is not a Union Territory?

A. Puducherry
B. Chandigarh
C. Lakshadweep
D. Sikkim

Ans
1. A
2. D
3. C
4. B

Q.94 If '+' and '÷' ; '×' and '–' are interchanged in the equation: **17÷7–27+7×37**, then its value will be

A. 7
B. 17
C. 27
D. 37

Question ID : **2055231108**
Status : **Answered**
Chosen Option : **1**

Ans
1. A
2. C
3. D
4. B

Q.95 If the mathematical operator '+' means division, '–' means multiplication, '×' means subtraction and '÷' means addition, then the value of

1 × 7 + 21 × 2 ÷ 2 + 3 – 4 is

A. 8/3
B. 4/3
C. -4/3
D. -8/3

Question ID : **2055231107**
Status : **Answered**
Chosen Option : **1**

Ans
1. B
2. D
3. A
4. C

Q.96 10 people can do a work in 30 days. In how many days, can 15 people complete double the work?

A. 20
B. 25
C. 40
D. 45

Question ID : **2055231082**
Status : **Answered**
Chosen Option : **1**

Ans
1. C
2. D
3. B
4. A

Q.97

Question ID : **2055231115**
Status : **Answered**
Chosen Option : **4**

Look carefully at the sequence of symbols to find the pattern.

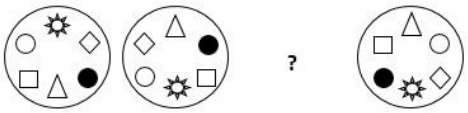

Which of the following will replace the (?) in the sequence?

A.

B.

C.

D.

Ans

✗ 1. B

✗ 2. D

✗ 3. A

✓ 4. C

Q.98 Statements followed by some conclusions are given below.

Question ID : **2055231131**
Status : **Marked For Review**
Chosen Option : **4**

Statements:

1. Most people have orange scooters while some have red ones.
2. People like bright coloured scooters.

Conclusions:

I. People cannot afford bright coloured cars.
II. Most people prefer orange over other bright colours.

Find which of the given conclusions logically follows from the given statements.

A. Only conclusion I follows.
B. Only conclusion II follows.
C. Both I and II follow.
D. Neither I nor II follows.

Ans

✓ 1. B

✗ 2. A

✗ 3. C

✗ 4. D

Q.99

Question ID : **2055231054**
Status : **Marked For Review**
Chosen Option : **1**

Which of the following is not a bleaching agent?

A. Sodium hypochlorite
B. Calcium hypochlorite
C. Hydrogen peroxide
D. Hydrogen sulphide

Ans
✔ 1. D
✘ 2. C
✘ 3. A
✘ 4. B

Q.100 Which movement was called off following the violence at 'Chauri Chaura' incident?

A. Khilafat Movement
B. Quit India Movement
C. Non co-operation Movement
D. Home Rule Movement

Question ID : **2055231040**
Status : **Answered**
Chosen Option : **3**

Ans
✘ 1. D
✘ 2. B
✔ 3. C
✘ 4. A